Question **1**

Complete

Mark 1.25 out of 1.25

Flag question

Fie urmatorul tablou:

{7;9;3;2;4;6;8;5}

Sa se afiseze configuratia tabloului pentru pasul corespunzator incrementului cu valoarea 3, in cazul sortarii acestui tablou cu algoritmul shellsort

H[i]=3:

2	4	3	7	5	6	8	9

Question **2**

Complete

Mark 1.25 out of 1.25

Flag question

Write the configuration of the following array:

{7;9;3;2;4;6;8;5}

after the step in which you have applied the increment with a value of 5.

H[i]=5:

6	8	3	2	4	7	9	5

Question **3**

Complete

Mark 1.25 out of 1.25

Flag question

Fie tabloul:

{1;9;3;7;4;2;6;5}

Sa se scrie configuratia tabloului, la pasul la care ajunge pentru prima data ansamblu (min-heap).

Heap 1:

1	4	2	5	9	3	6	7

Question **4**

Complete

Mark 1.25 out of 1.25

Flag question

For the array:

{3;5;2;4;1}

write its configuration after the first steps of **descending** QuickSort, using a middle pivot, if one step is exactly one interchange:

step 1:

3	5	4	2	1

step 2:

5	3	4	2	1

step 3:

5	4	3	2	1

Question **5**

Complete

Mark 1.25 out of 1.25

Flag question

For the array:

{7;6;2;1;9}

write its configuration after the first steps of QuickSort, using a middle pivot, if one step is exactly one interchange:

step 1: 1 6 2 7 9

step 2: 1 2 6 7 9

Question **6**

Complete

Mark 1.25 out of 1.25

Flag question

For the array:

{4;3;5;2;1}

write its configuration after Direct RadixSort, using b=2 bits:

- after the first sort

4 5 1 2 3

- after the second sort

1 2 3 4 5

Question **7**

Complete

Mark 1.25 out of 1.25

Flag question

For the array:

{4;5;3;1;2}

write its configuration after Direct RadixSort, using b=2 bits:

- after the first sort

4	5	1	2	3

- after the second sort

1	2	3	4	5

Question **8**

Complete

Mark 1.25 out of 1.25

Flag question

For the array:

{1;3;2;4;0}

write its configuration after the first steps of BinSort, considering a step as an interchange:

step 1:

3	1	2	4	0

step 2:

4	1	2	3	0

step 3:

0	1	2	3	4

Quiz 3 - Advanced Sorting Algorithms (page 1 of 8) - Opera

cv.upt.ro/mod/quiz/attempt.php

CV

Data Structures and Algorithms

Quiz navigation

Finish attempt ...

Time left **0:01:24**

Question **1**

Answer saved

Marked out of 1.25

Flag question

For the array:

{7;9;3;2;4;6;8;5}

write its configuration after ShellSort with increment 3

H[i]=3:

2	4	3	7	5	6	8	9

Next page

Type here to search

ENG 5:23 PM 10/27/2020

For the array:

{1;3;2;4;0}

write its configuration after the first steps of BinSort, considering a step as an interchange:

step 1: 3 1 2 4 0

step 2: 4 1 2 3 0

step 3: 0 1 2 3 4

For the array:

{4;3;5;2;1}

write its configuration after Interchange RadixSort:

- after sorting bit 2 (most significant bit):

- after sorting bit 1:



- after sorting bit 0:

Question **1**

Complete

Mark 1.25 out of 1.25

Flag question

Fie urmatorul tablou:

{5;3;9;7;0;2;6;4;8}

Sa se afiseze configuratia tabloului pentru pasul corespunzator incrementului cu valoarea 4, in cazul sortarii acestui tablou cu algoritmul shellsort

H[i]=4:

0	2	6	4	5	3	9	7	8

Question **2**

Complete

Mark 1.25 out of 1.25

Flag question

Write the configuration of the following array:

{9;2;5;1;4;7;3;8}

after the step in which you have applied the increment with a value of 5.

H[i]=5:

7	2	5	1	4	9	3	8

Question **3**

Complete

Mark 0.63 out of 1.25

Flag question

Fie tabloul:

{7;9;3;2;4;6;8;5}

Sa se scrie configuratia tabloului, la pasul la care ajunge pentru prima data ansamblu (min-heap).

Heap 1:

2	3	6	5	4	7	8	9

Question **4**

Complete

Mark 1.25 out of 1.25

Flag question

For the array:

{3;5;2;4;1}

write its configuration after the first steps of **descending** QuickSort, using a middle pivot, if one step is exactly one interchange:

step 1:

3	5	4	2	1

step 2:

5	3	4	2	1

step 3:

5	4	3	2	1

Question **5**

Complete

Mark 1.25 out of 1.25

Flag question

For the array:

{7;6;2;1;9}

write its configuration after the first steps of QuickSort, using a middle pivot, if one step is exactly one interchange:

step 1: 1 6 2 7 9

step 2: 1 2 6 7 9

Question **6**

Complete

Mark 1.25 out of 1.25

Flag question

For the array:

{4;3;5;2;1}

write its configuration after Direct RadixSort, using b=2 bits:

- after the first sort

4	5	1	2	3

- after the second sort

1	2	3	4	5

Question **7**

Complete

Mark 1.25 out of 1.25

Flag question

For the array:

{4;3;5;2;1}

write its configuration after Interchange RadixSort:

- after sorting bit 2 (most significant bit):

1	3	2	5	4

- after sorting bit 1:

1	3	2	5	4

- after sorting bit 0:

1	2	3	4	5

Question **8**

Complete

Mark 1.25 out of 1.25

Flag question

For the array:

{1;3;2;4;0}

write its configuration after the first steps of BinSort, considering a step as an interchange:

step 1: 3 1 2 4 0

step 2: 4 1 2 3 0

step 3: 0 1 2 3 4

Quiz 3 - Advanced Sorting Algorithms (page 4 din 8) - Google Chrome

cv.upt.ro/mod/quiz/attempt.php?attempt=185216&cmid=49413&page=3

CV

Data Structures and Algorithms

Navigare în test

Încheiați încercarea ...

Timp rămas **0:13:36**

4 Întrebare

Răspuns salvat

Marcat din 1,25

Întrebare cu flag

For the array:

{7;6;2;1;9}

write its configuration after the first steps of QuickSort, using a middle pivot, if one step is exactly one interchange:

step 1: 1 6 2 7 9

step 2: 1 2 6 7 9

Pagina precedentă

Următoarea pagină

Activate Windows
Go to Settings to activate Windows.

Type here to search

ENG 5:10 PM 10/27/2020

Quiz 3 - Advanced Sorting Algorithms (page 3 din 8) - Google Chrome

cv.upt.ro/mod/quiz/attempt.php?attempt=185216&cmid=49413&page=2

CV

Data Structures and Algorithms

Navigare în test

Încheiați încercarea ...

Timp rămas **0:13:20**

3 întrebare

Răspuns salvat

Marcat din 1,25

Întrebare cu flag

For the array:

{1;9;3;7;4;2;6;5}

write its configuration at the step it first reaches the heap state (min-heap):

Heap 1:

1	4	2	5	9	3	6	7

Pagina precedentă

Următoarea pagină

Activate Windows
Go to Settings to activate Windows.

Type here to search

ENG 5:11 PM 10/27/2020

6 Întrebare

Complet

Marcat 1,25 din 1,25

Întrebare cu flag

For the array:

{4;3;5;2;1}

write its configuration after Direct RadixSort, using b=2 bits:

- after the first sort

4 5 1 2 3

- after the second sort

1 2 3 4 5

7 Întrebare

Complet

Marcat 1,25 din 1,25

Întrebare cu flag

For the array:

{4;5;3;1;2}

write its configuration after Direct RadixSort, using b=2 bits:

- after the first sort

4 5 1 2 3

- after the second sort

1 2 3 4 5

Început la	Tuesday, 27 October 2020, 16:49
Status	Terminat
Completat la	Tuesday, 27 October 2020, 17:24
Timp luat	34 min 47 secs
Notează	**10,00** din maxim 10,00 (**100**%) posibil

1 Întrebare

Complet

Marcat 1,25 din 1,25

Întrebare cu flag

Fie urmatorul tablou:

{7;9;3;2;4;6;8;5}

Sa se afiseze configuratia tabloului pentru pasul corespunzator incrementului cu valoarea 5, in cazul sortarii acestui tablou cu algoritmul shellsort

H[i]=5:

6	8	3	2	4	7	9	5

2 Întrebare

Complet

Marcat 1,25 din 1,25

Întrebare cu flag

Write the configuration of the following array:

{9;2;5;1;4;7;3;8}

after the step in which you have applied the increment with a value of 5.

H[i]=5:

7	2	5	1	4	9	3	8

Question **1**

Complete

Mark 1.25 out of 1.25

Flag question

For the array:

{7;9;3;2;4;6;8;5}

write its configuration after ShellSort with increment 3

H[i]=3:

2	4	3	7	5	6	8	9

Question **2**

Complete

Mark 1.25 out of 1.25

Flag question

Write the configuration of the following array:

{19;2;5;0;4;7;3;8}

after the step in which you have applied the increment with a value of 5.

H[i]=5:

7	2	5	0	4	19	3	8

Question **3**

Complete

Mark 0.63 out of 1.25

Flag question

For the array:

{7;9;3;2;4;6;8;5}

write its configuration at the step it first reaches the heap state (min-heap):

Heap 1:

2	3	6	5	4	7	8	9

Question **4**

Complete

Mark 1.08 out of 1.25

Flag question

For the array:

{3;5;2;4;1}

write its configuration after the first steps of **descending** QuickSort, using a middle pivot, if one step is exactly one interchange:

step 1: 3 5 4 2 1

step 2: 3 5 4 2 1

step 3: 5 4 3 2 1

Question **5**

Complete

Mark 1.00 out of 1.25

Flag question

For the array:

{1;2;4;3;5}

write its configuration after the first steps of **descending** QuickSort, using a middle pivot, if one step is exactly one interchange:

step 1: 5 2 4 3 1

step 2: 5 3 4 2 1

step 3: 5 4 3 2 1

Question **6**

Complete

Mark 1.25 out of 1.25

Flag question

For the array:

{4;5;3;1;2}

write its configuration after Direct RadixSort, using b=2 bits:

- after the first sort

4 5 1 2 3

- after the second sort

1 2 3 4 5

Question **7**

Complete

Mark 1.25 out of 1.25

Flag question

For the array:

{4;3;5;2;1}

write its configuration after Direct RadixSort, using b=2 bits:

- after the first sort

4 5 1 2 3

- after the second sort

1 2 3 4 5

Question **8**

Complete

Mark 1.00 out of 1.25

Flag question

For the array:

{4;2;0;3;1}

write its configuration after the first steps of BinSort, considering a step as an interchange:

step 1: 1 2 0 3 4

step 2: 0 2 1 3 4

step 3: 0 1 2 3 4

Question **4**

Complete

Mark 1.25 out of 1.25

Flag question

For the array:

{7;6;3;9;2}

write its configuration after the first steps of QuickSort, using a middle pivot, if one step is exactly one interchange:

step 1: 2 6 3 9 7

step 2: 2 3 6 9 7

step 3: 2 3 6 7 9

Question **1**

Complete

Mark 1.25 out of 1.25

Flag question

Fie urmatorul tablou:

{5;3;9;7;0;2;6;4;8}

Sa se afiseze configuratia tabloului pentru pasul corespunzator incrementului cu valoarea 4, in cazul sortarii acestui tablou cu algoritmul shellsort

H[i]=4:

0	2	6	4	5	3	9	7	8

Question **2**

Complete

Mark 1.25 out of 1.25

Flag question

Write the configuration of the following array:

{19;2;5;0;4;7;3;8}

after the step in which you have applied the increment with a value of 5.

H[i]=5:

7	2	5	0	4	19	3	8

Question **3**

Complete

Mark 1.25 out of 1.25

Remove flag

Fie tabloul:

{9;3;1;6;4;2;8;5}

Sa se scrie configuratia tabloului, la pasul la care ajunge pentru prima data ansamblu (min-heap).

Heap 1:

1	3	2	5	4	9	8	6

Question **4**

Complete

Mark 1.25 out of 1.25

Flag question

For the array:

{7;6;2;1;9}

write its configuration after the first steps of QuickSort, using a middle pivot, if one step is exactly one interchange:

step 1:

1	6	2	7	9

step 2:

1	2	6	7	9

Question **5**

Complete

Mark 1.25 out of 1.25

Flag question

For the array:

{3;5;2;4;1}

write its configuration after the first steps of **descending** QuickSort, using a middle pivot, if one step is exactly one interchange:

step 1: 3 5 4 2 1

step 2: 5 3 4 2 1

step 3: 5 4 3 2 1

Question **6**

Complete

Mark 1.25 out of 1.25

Flag question

For the array:

{4;3;5;2;1}

write its configuration after Interchange RadixSort:

- after sorting bit 2 (most significant bit):

1 3 2 5 4

- after sorting bit 1:

1 3 2 5 4

- after sorting bit 0:

1 2 3 4 5

Question **7**

Complete

Mark 1.25 out of 1.25

Flag question

For the array:

{4;5;3;1;2}

write its configuration after Direct RadixSort, using b=2 bits:

- after the first sort

4 5 1 2 3

- after the second sort

1 2 3 4 5

Question **8**

Complete

Mark 1.25 out of 1.25

Flag question

For the array:

{3;2;4;1;0}

write its configuration after the first steps of BinSort, considering a step as an interchange:

step 1: 1 2 4 3 0

step 2: 2 1 4 3 0

step 3: 4 1 2 3 0

step 4: 0 1 2 3 4

Question **4**

Not yet answered

Marked out of 2.00

Flag question

Write the contents of the following files after each phase of the 4-way **natural** sequence merging algorithm applied to file "C":

C: 1 9 6 3 2

A: 1 9 3

B: 6 2

C: 1 6 9

D: 2 3

A: 1 2 3 6 9

Question **3**

Answer saved

Marked out of 2.00

Flag question

The merging technique involves dividing the input data into an approximately equal number of sequences between the auxiliary files.

Select one:

- (●) True
- ( ) False

Previous page

Next page

Quiz 4 - Merge sorts (page 1 of 5) - Personal - Microsoft Edge

https://cv.upt.ro/mod/quiz/attempt.php?attempt=190704&cmid=150002

CV

Data Structures and Algorithms

Quiz navigation

Finish attempt ...

Time left **0:19:35**

Question **1**

Not yet answered

Marked out of 2.00

Flag question

Write the contents of the following files after each phase of the 3-way sequence merging algorithm applied to file "A":

A: 1 9 6 4 2

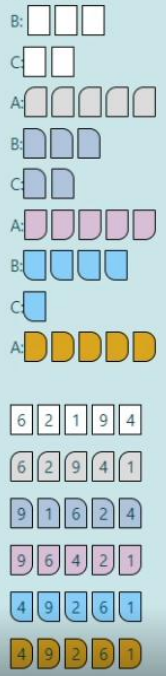

00:00:26

00:19:07

Next page

Type here to search

ENG 16:51 03/11/2020

Quiz 4 - Merge sorts (page 2 of 5) - Personal - Microsoft Edge

https://cv.upt.ro/mod/quiz/attempt.php?attempt=190704&cmid=150002&page=1

CV

Data Structures and Algorithms

Quiz navigation

Finish attempt ...

Time left **0:12:32**

Question **2**

Not yet answered

Marked out of 2.00

Flag question

The sequential sorting technique is not stable, if the inequality of less or equal (<=) is used within a merging step.

Select one:

- True
- False

Previous page

Next page

2020-11-03 16-50-37

00:07:29

00:12:04

Type here to search

ENG

16:58

03/11/2020

Quiz 4 - Merge sorts (page 3 of 5) - Personal - Microsoft Edge

https://cv.upt.ro/mod/quiz/attempt.php?attempt=190704&cmid=150002&page=2

CV

Data Structures and Algorithms

Quiz navigation

Finish attempt ...

Time left **0:10:37**

Question **3**

Not yet answered

Marked out of 2.00

Flag question

Write the contents of the following files after each phase of the 4-way **natural** sequence merging algorithm applied to file "C":

C: 1 9 7 5 2

A:

B:

C:

D:

A:

9 7 1 5 2

7 5 9 1 2

9 2 7 1 5

Previous page

Next page

2020-11-03 16-50-37

00:07:29

00:12:04

Type here to search

Quiz 4 - Merge sorts (page 5 of 5) - Personal - Microsoft Edge

https://cv.upt.ro/mod/quiz/attempt.php?attempt=190704&cmid=150002&page=4

CV

Data Structures and Algorithms

Quiz navigation

Finish attempt ...

Time left **0:04:37**

Question **5**

Not yet answered

Marked out of 2.00

Flag question

Write the contents of the following files after each phase of the 4-way sequence merging algorithm applied to file "C":

C: 1 9 7 3 2

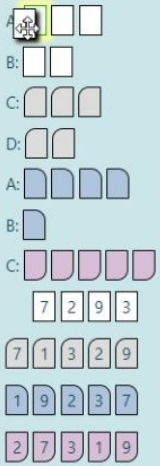

Previous page

Finish attempt ...

00:07:29

00:12:04

Type here to search